Lecture 21
Phasors – 7 of 9

AC power

Power – DC Resistive Circuits

- General expression: $P = v\,i$

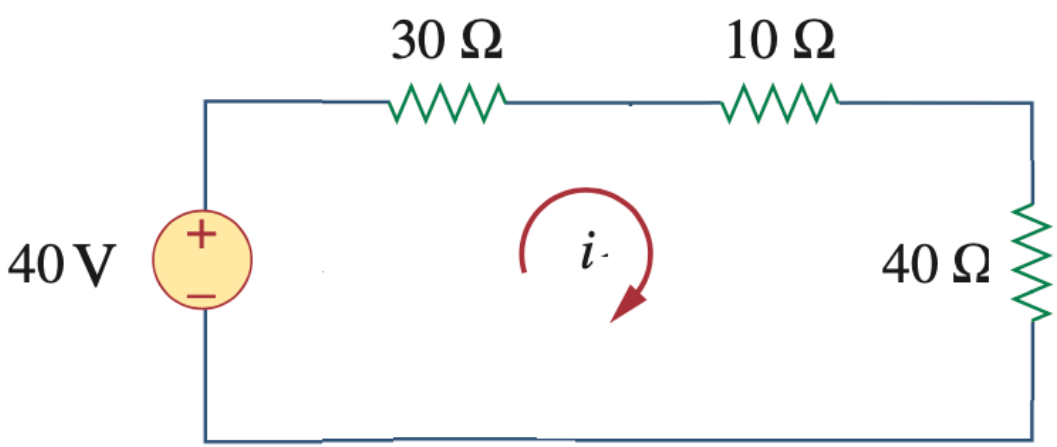

- Solve for clockwise current: $i = \frac{40\ V}{80\ \Omega} = 0.5\ A$

- With $i = \frac{40\ V}{80\ \Omega} = 0.5\ A$

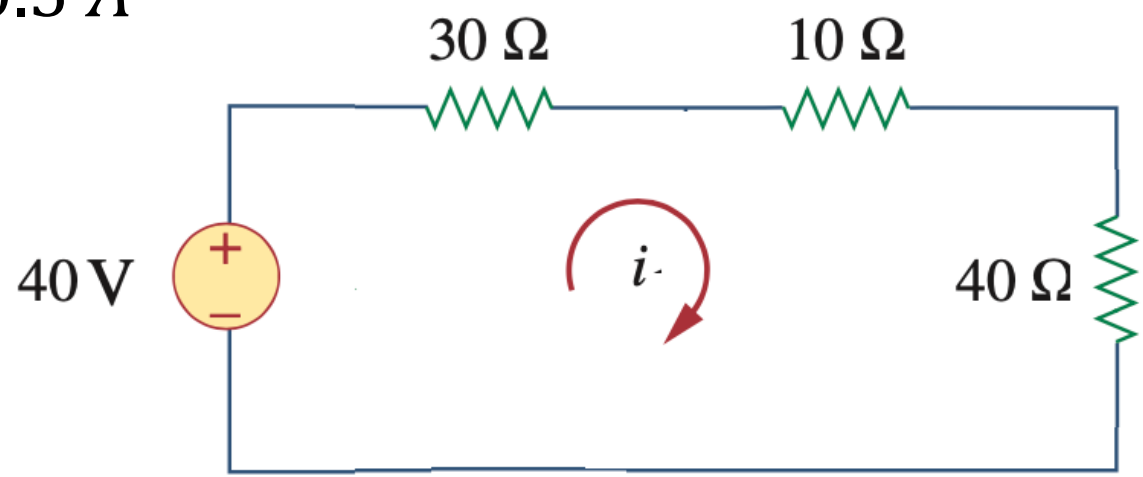

- Using $v = R\ i$ and $P = v\ i$

$$v_{30} = 15\ V \qquad P_{30} = 7.5\ W$$

$$v_{10} = 5\ V \qquad \boldsymbol{P_{10} = 2.5\ W}$$

$$v_{40} = 20\ V \qquad P_{40} = 10\ W$$

$$i_{source} = -0.5\ A \qquad P_{source} = -20\ W$$

Power sums to zero

Sinusoidal Source

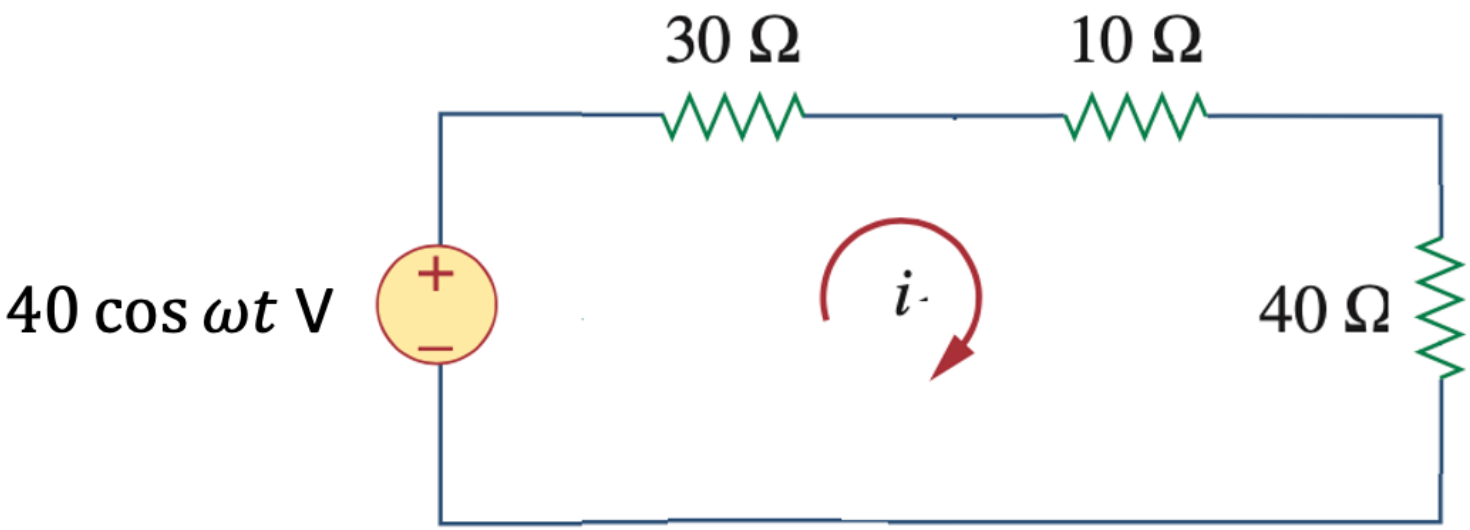

- Using phasors, clockwise current phasor is $\mathbf{I} = \frac{40}{80} = 0.5$ so $i(t) = 0.5 \cos \omega t$ A

- With $i(t) = 0.5 \cos \omega t$

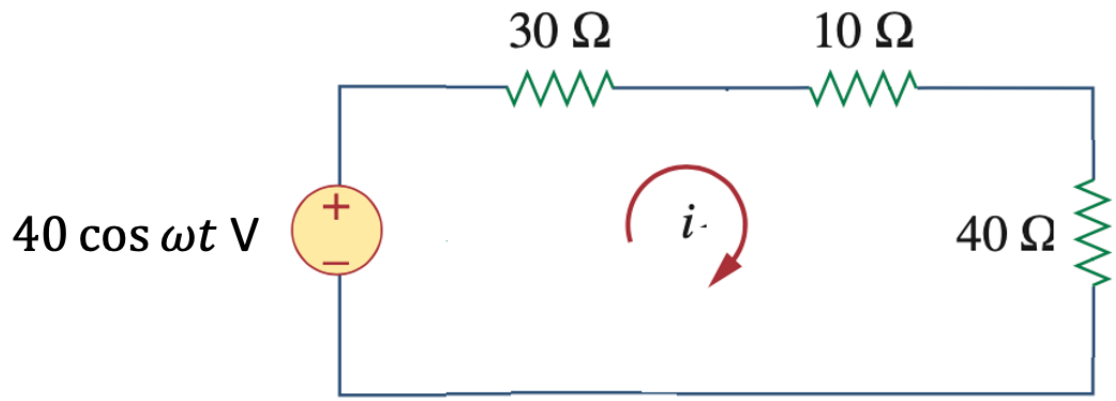

- Consider the 10 Ω resistor:

$$i_{10}(t) = 0.5 \cos \omega t \text{ A}$$

$$v_{10}(t) = 10\, i_{40}(t) = 5 \cos \omega t \text{ V}$$

$$p_{10}(t) = v_{10}(t)\, i_{10}(t) = 2.5 \cos^2 \omega t \text{ W}$$

$$= 1.25 + 1.25 \cos 2\omega t \text{ W}$$

- Graphically:

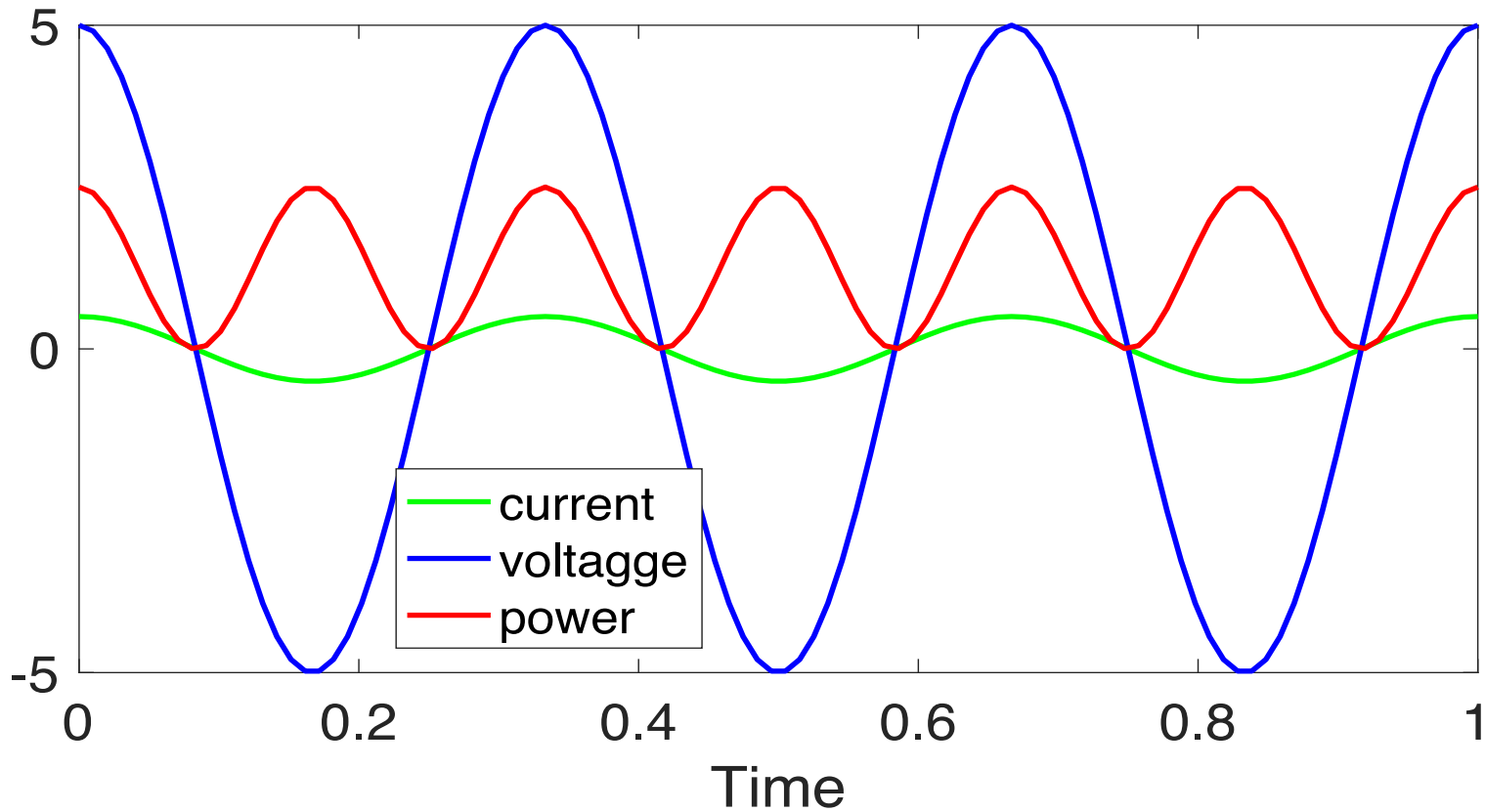

- To simplify, keep just the average value
  - Since periodic, average over 1 period

$$P = \frac{1}{T}\int_{t}^{t+T} v(t)i(t)dt$$

  - For our example

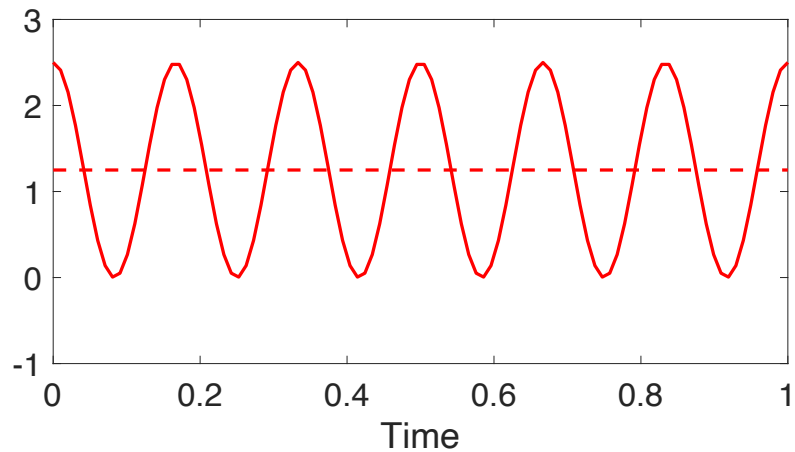

$$P_{4\Omega} = \frac{1}{T}\int_{0}^{T}(1.25 + 1.25\cos 2\omega t)dt = \mathbf{1.25\ W}$$

5 volts, 0.5 amps, but <u>not 2.5</u> watts

- In general, for AC and resistors $\mathrm{V} = \mathrm{I}\,\mathrm{R}$

$$v(\mathrm{t}) = \mathrm{V}\cos\omega t \qquad\qquad i(\mathrm{t}) = \mathrm{I}\cos\omega t$$

$$P(t) = v(t)\,i(t) = \mathrm{V}\,\mathrm{I}\cos^2\omega t$$

$$= \frac{\mathrm{V}\,\mathrm{I}}{2} + \frac{\mathrm{V}\,\mathrm{I}}{2}\cos\ 2\omega t = \frac{\mathrm{V}}{\sqrt{2}}\frac{\mathrm{I}}{\sqrt{2}} + \frac{\mathrm{V}}{\sqrt{2}}\frac{\mathrm{I}}{\sqrt{2}}\cos\ 2\omega t$$

$$P_{average} = \frac{\mathrm{V}}{\sqrt{2}}\frac{\mathrm{I}}{\sqrt{2}} = V_{RMS}\,I_{RMS}$$

What the DMM reads!

What about an RLC Load?

- Consider

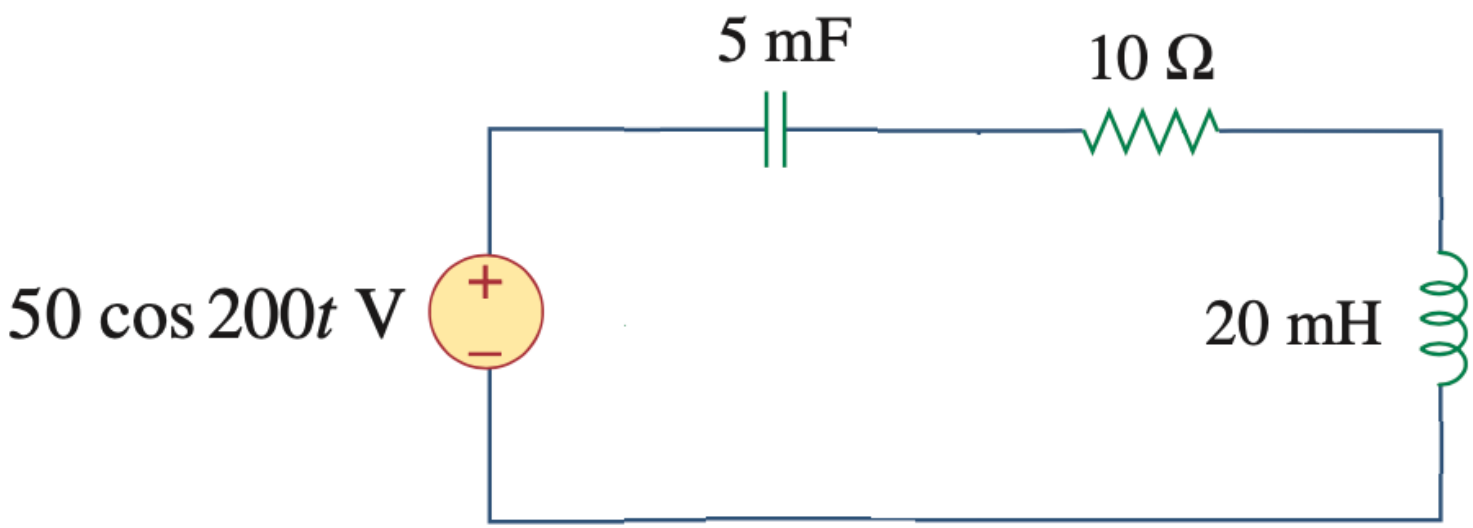

- Solve for the current and voltages using phasors

- Convert to phasors and impedances

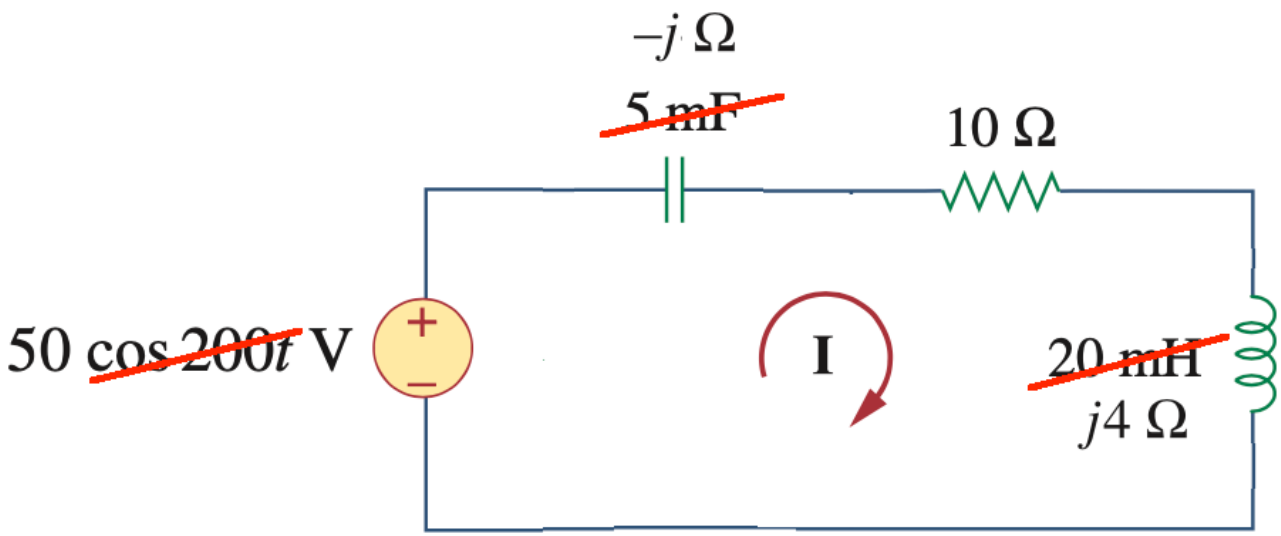

- The clockwise current is

$$\mathbf{I} = \frac{50}{-j1+10+j4} = \frac{50}{10+j3} = 4.59 - j1.38$$

$$i(t) = 4.79\cos(200t - 16.7°)\ \text{A}$$

- Resistor:

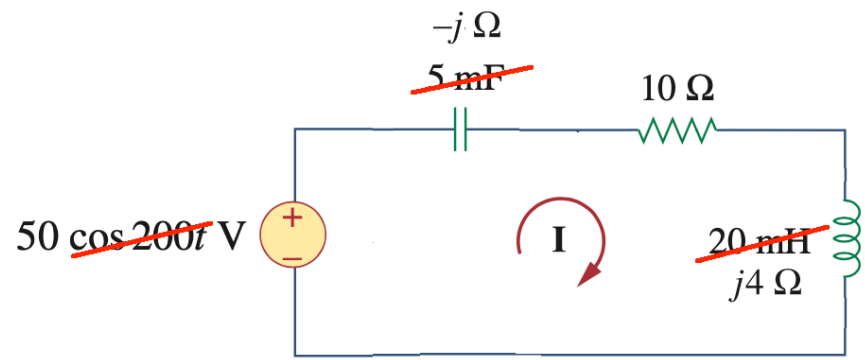

$\mathbf{I} = 4.59 - j1.38$

$\mathbf{V} = 10\ \ \mathbf{I} = 45.9 - j13.8$

$$i(t) = 4.79\cos(200t - 16.7°)\ \ A$$

$$v_R(t) = 47.9\cos(200t - 16.7°)\ \text{V}$$

$$p(t) = v(t)\ i(t)$$

$$= 229\cos^2(200t - 16.7°)\ \text{W}$$

$$= 115 + 115\ \cos(400t - 33.4°)\ \text{W}$$

So $P_{average} = 115\ W$

- Inductor:

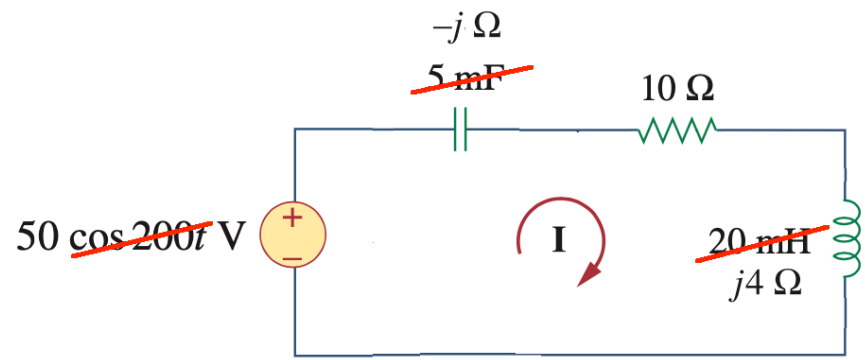

$\mathbf{I} = 4.59 - j1.38$

$\mathbf{V} = j4\ \ \mathbf{I} = 5.50 + j18.3$

$$i(t) = 4.79\cos(200t - 16.7°)\ \ A$$

$$v_L(t) = 19.2\cos(200t + 73.3°)\ \ \text{V}$$

$$p(t) = v(t)\ i(t)$$

$$= 92.0\cos(200t - 16.7°)\cos(200t + 73.3°)\ \ \text{W}$$

$$= 46.0\ \ \cos(400t + 56.6°)\ \text{W}$$

So $P_{average} = 0$

- Capacitor:

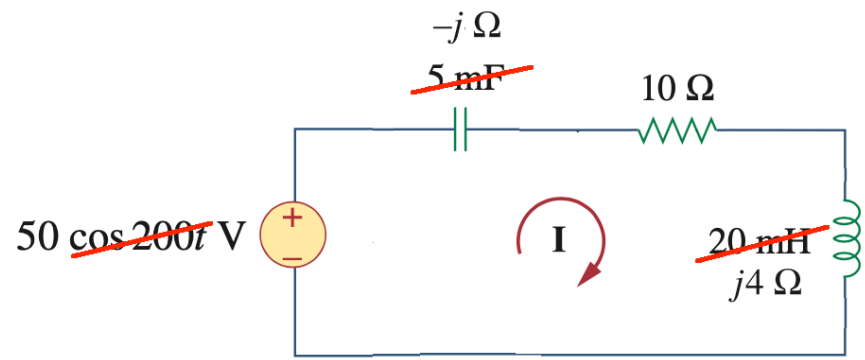

$$\mathbf{I} = 4.59 - j1.38$$

$$\mathbf{V} = -j1\ \mathbf{I} = -1.38 - j4.59$$

$$i(t) = 4.79\cos(200t - 16.7°)\ A$$

$$v_C(t) = 4.79\cos(200t - 107°)\ \text{V}$$

$$p(t) = v(t)\ i(t)$$

$$= 22.9\cos(200t - 16.7°)\cos(200t - 107°)\ \text{W}$$

$$= 11.5\ \cos(400t - 124°)\ \text{W}$$

So $P_{average} = 0$

- The source:

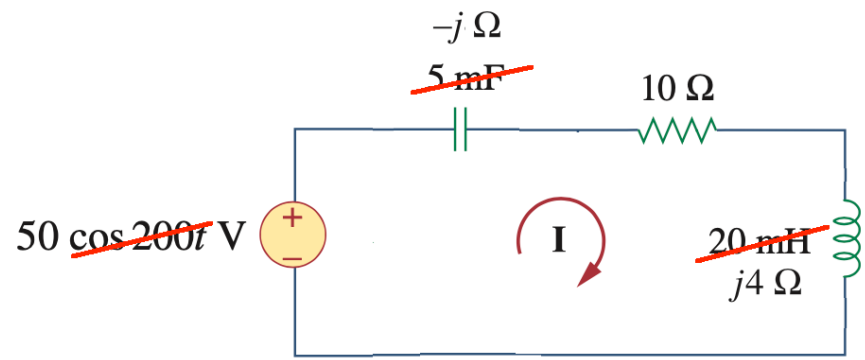

$\mathbf{I} = 4.59 - j1.38$

$$i(t) = 4.79\cos(200t - 16.7°)\ A$$

$\mathbf{V} = -50$

$$V_s(t) = 50\cos 200t\ \text{V}$$

$$p(t) = V_s(t)\, i(t)$$

$$= -239\cos 200t\ \cos(200t - 16.7°)\ \text{W}$$

$$= -115 - 120\cos(400t - 16.7°)\text{W}$$

So $P_{average} = -115\ \text{W}$

- Summary:

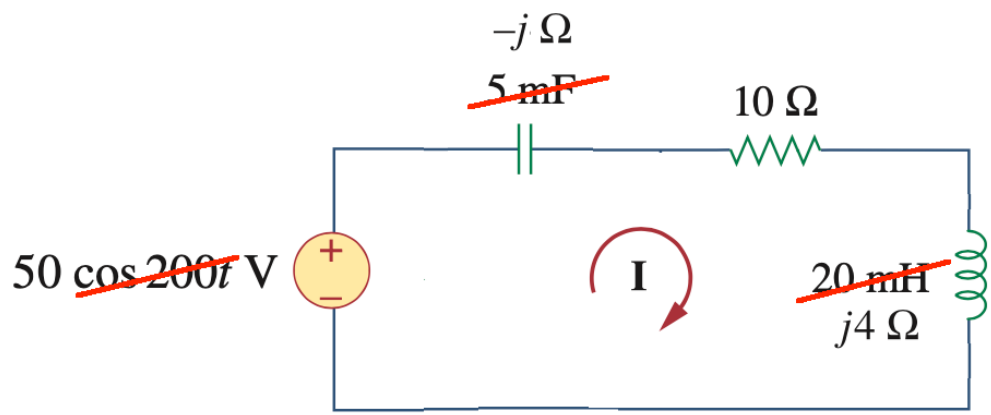

Real power
P = 115 Watts

$$P_R(t) = 115 + 115\cos(400t - 33.4°) \quad \text{W}$$
$$P_L(t) = 46.0\cos(400t + 56.6°) \text{ W}$$
$$P_C(t) = 11.5\cos(400t - 124°) \text{ W}$$
$$P_S(t) = -115 - 120\cos(400t - 16.7°) \quad \text{W}$$

Reactive power
Q = 34.5 VARs

Time varying portions sum to zero

Complex Power
$$S = P + jQ$$

Complex Power

- Can get these quantities directly from phasors

$$S = P + jQ = \frac{\mathbf{V}\,\mathbf{I}^*}{2} = \begin{cases} \dfrac{(\mathbf{Z}\,\mathbf{I})\,\mathbf{I}^*}{2} = \dfrac{\mathbf{Z}\,\mathbf{I}\,\mathbf{I}^*}{2} = \dfrac{|\mathbf{I}|^2}{2}\mathbf{Z} \\[2ex] \dfrac{\mathbf{V}\,(\mathbf{V}/\mathbf{Z})^*}{2} = \dfrac{\mathbf{V}\,\mathbf{V}^*}{2\,\mathbf{Z}^*} = \dfrac{|\mathbf{V}|^2}{2\,\mathbf{Z}^*} \end{cases}$$

- Our example

$$S = \frac{50\,(4.59 - j1.38)^*}{2} = 115 + j34.5$$

- Consider a load $\boldsymbol{Z} = |Z|e^{j\theta}$ and that we have the phasor relationship $\boldsymbol{I} = \frac{\boldsymbol{V}}{\boldsymbol{Z}}$
  - The angle between the current and voltage phasors (vectors) is θ

- Further, recall the vector dot product so that the average power is

$$P = \frac{\mathbf{V}\,\mathbf{I}^*}{2} = \frac{|\mathbf{V}||\boldsymbol{I}|\cos\theta}{2} = \frac{|\mathbf{V}|}{\sqrt{2}}\frac{|\boldsymbol{I}|}{\sqrt{2}}\cos\theta$$

$$= V_{RMS}\, I_{RMS} \cos\theta$$

"power factor"

Example problem: Find the real and reactive powers absorbed by the <u>load</u> in this circuit.

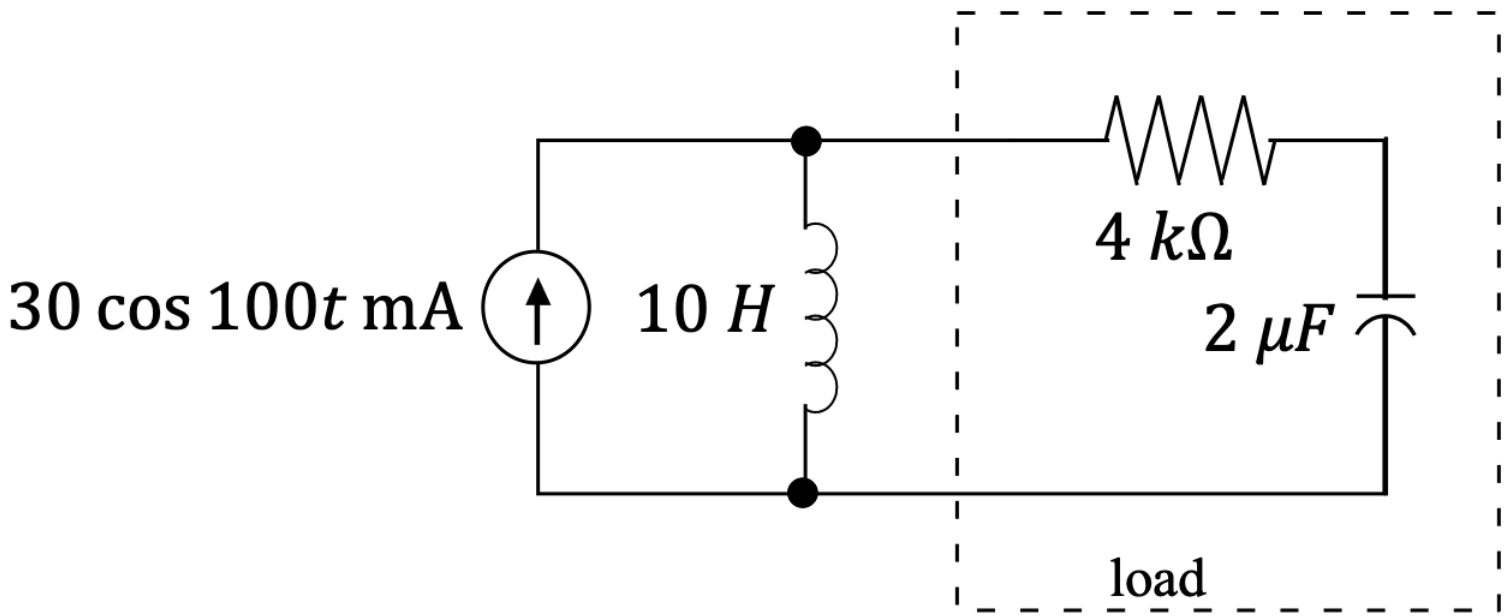

$5.625\ mW, -7.031\ mVARs$